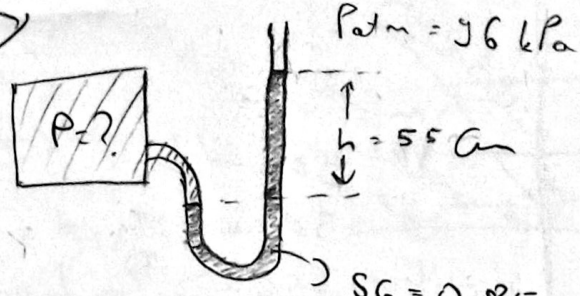
Termo

Problem 1

ör)



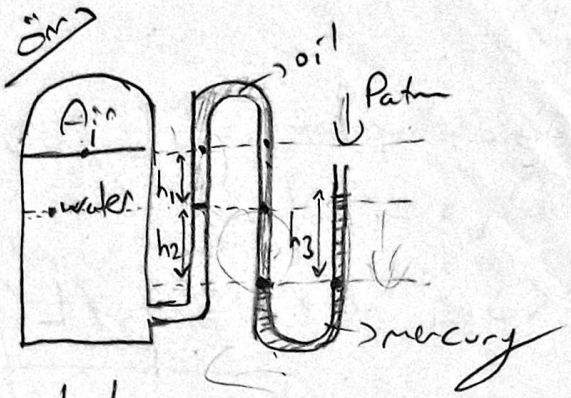
$P = P_{atm} + \rho_1 g h$

$P = 96\,kPa + 0.85 \times 1000 \times 9.81 \times 0.55\,m$

$P = 100.6\,kPa$

meareye gerek.

ör)



verilen

$P_{atm} = 85.6\,kPa$

$h_1 = 0.1\,m \quad h_2 = 0.2\,m \quad h_3 = 0.35\,m$

$\rho_{su} = 1000\,kg/m^3$, $\rho_{yag} = 850\,kg/m^3$, $\rho_{civa} = 13600\,kg/m^3$

$P_{air} = ?$

$P_{air} + P_{water} + P_{oil} h_2 = P_{atm} + P_{mercury}$

$P_{air} + \rho_{su} g h_1 + \rho_{oil} g h_2 = P_{atm} + \rho_{civa} g h_3$

$P_{air} = P_1$

$P_1 = 85.6\,kPa + 13600 \cdot 9.81 \cdot 0.35\,m - 1000 \cdot 9.81 \cdot 0.1 - 850 \cdot 9.81 \cdot 0.2\,m$

$P_1 = 129.6\,kPa$

Örn 2-1

Günlük harc. benzin = 5L/Gün

Depo = 50L

$0,68 < \rho_{Benzin} < 0,78$ kg/L

$Q_{yanma} = 46000$ kJ/kg

$46000\ kJ/kg \cdot 0,78\ kg/L \cdot 50L$

$Q_{toplam} = 1.716.000\ kJ$

$Q_{günlük} = 171.600\ kJ$

U-235

0,1kg U-235 = 10 gün yetermiş.

Örn 2-2

$\dot{m} = 8,5$ m/s $KE = ?$

$\frac{V^2}{2} = \frac{(8,5)^2}{2} = 36,12\ J/kg$

Bir kg için geçiyor.

b) $m = 10$ kg

$36,12 \times 10 = 361,2$ J

c) 1154 kg/s $\Rightarrow 36,12 \times 1154\ kg/s = [J/s]$ kW

Örn 2-3


$m = 1200$

$v = 90$ km/h

$\alpha = 30^\circ$

İnene göre ⇒ ? kuvvet sabit hızla için

$\Delta W = \frac{m \cdot g \cdot \Delta z}{\Delta t} = V_{dikey}$



$\Delta W = 1200\ kg \times 9,81\ m/s^2 \times \sin 30 \cdot 90\ km/h$

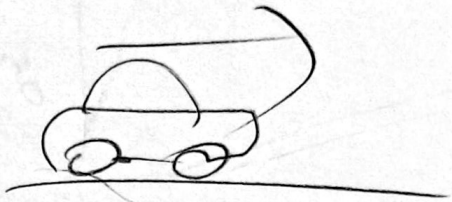
$1200\ kg \times 9,81\ m/s^2 \times \sin 30 \times 90\ km/h \times \frac{1000\ m}{1\ km} \times \frac{1\ h}{3600\ s}$

$\Delta W = 147150\ [m^2/s^2 = J/s]$

$= 147,150\ [kJ/s = kW]$

Term Problem (2)

Work 2-9



$m = 900\,kg$

$t = 20\,s.$

$80\ km/h \quad V = ?_0$

$$\frac{0 - 80\ km/h}{20\,s} = a$$

$$\Delta W = \frac{1}{2} \cdot m (V_2 - V_1)^2$$

$$W = \frac{1}{2} \cdot 900\,kg \times (80\ km/h)^2 \times \frac{10^6\,m^2}{1\,km^2} \times \frac{1\,h^2}{(3600)^2\,s^2} \times \left(\frac{1000\,J}{1\,kJ}\right)^{-1} \times \left(\frac{1\,J/kg}{1\,m^2/s^2}\right)$$

$$W = 222.2\ kJ$$

$$Work_{kw} = \frac{222.2\,kJ}{20\,sn} = 11.11\ kJ/s = kW$$

Örn 2-13

80W × 30 floresan

Q_T = 2400 W

250g × 12h = 3000h

1 kW-h elektrik → 2 sent

2,4 kW × 3000h = 7200 kW-h × 7

50400 sent × $\frac{1\$}{100 sent}$ = 504 $/yıllık ✓

Örn 2-15

elektrikli Ocak	Gaz
η = 73%	η = 38%
$/elektrik = $0,09/kW-h	$0,55/therm

2kW enerjili bir Ocak için

~~2kW × 173 × 0,09/kW-h~~ = 0

Örn 2-16

$\dot{m}$ = 5000 kg/s

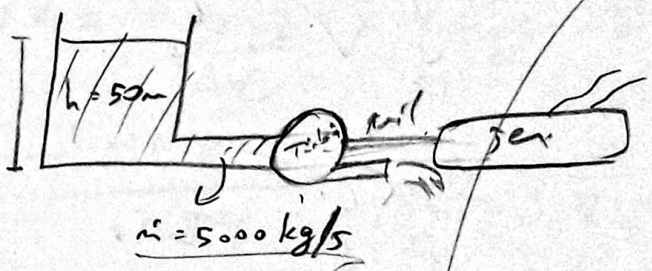
$W_{türbin}$ = 1862 kW

η_{jen} = %95

a) η_{toplam}

b) $\eta_{Türb.}$

c) mil gücü



c) $\frac{1862\ kW \times 100}{95}$ = 1960 kW

b) $\dot{m} \cdot g \cdot \Delta z$ (9,81 → 50 m)

5000 kg/s × 9,81 m/s² × 50m × $\frac{1\ J/kg}{m^2/s^2} \times \frac{1\ kJ}{1000\ J}$

2452,5 kg · kJ/s = kW

$\frac{1960\ kW}{2452,5\ kW}$ = 0,8 = $\eta_{Türb.}$ ✓

η_{toplam} =

a) Q_g / Q_g = $\left(\frac{2452,5}{1862}\right)^{-1}$ = 0,76

Termo Problem (3)

Sabit Const. Valve

$T = 90°C$

$m = 50\ kg$

doymuş sıvı hal su

$P = ?$ $V = ?$

@ A-5 (a) → P ve V değerleri

$P = 70\ kPa$

$v_f = 0,001036\ m^3/kg \times 50\ kg$

$V = 0,0518\ m^3$

---

a) $V_f = v_f \times m = 0,2kg \times v_f$

$V_f = 2,086 \times 10^{-4}\ m^3$

$V_g = 1,6941\ m^3/kg \times 0,2\ kg$

$V_g \cong 0,339\ m^3$

$V_g - V_f = \Delta V \cong 0,3386\ m^3$

---

b) $\Delta U = U_g - U_f = (u_g - u_f)(m)$

$\Delta U = 0,2 \times (2505,6 - 417,40)\ kJ/kg \times kg$

$\Delta U = 417,64\ kJ$

Δh hesaplıyacağım.

↳ Hacim sabit olduğundan elastik enerji yoktur.

$\Delta h = \Delta U + P\Delta V$

100 kPa × ΔV

---

a) Hacim değişikliği

b) Sıya verilen enerji.

@ Tablo A-5 v_f ve v_g değerleri.

$v_f = 0,001043$ $v_g = 1,6941\ [m^3/kg]$

Hal değişimi enerjisi $\Rightarrow \Delta U = U_g - U_f$ $U_g = 2505,6\ [kJ/kg]$

$U_f = 417,40$

Ödev

$m = 200g = 0,2\ kg$

$P = 100\ kPa$

doymuş sıvı su buharlaştırılıyor.

3'ü

Const. Volume

$T = 90°C$ a) = $P = ?$

$m = 10\ kg$ su b) = $V = ?$

8kg su 2kg buhar

@ $T = 90°C$ için Tablo A-4

a) $P_{doyum} = 70,183\ kPa$ $v_f = 0,001036$

$v_g = 2,3593$

b) $V_T = v_f \times 8 + v_g \times 2$

$V_T = 0,001036 \times 8\ kg \times m^3/kg + 2,3593 \times 2$

$V_T = 4,7227\ m^3$

---

x = girde buhar kütlesi

$m_T \cdot x = m_g$ $m_g = 0,628\ kg$

$V_g = 0,628\ kg \times v_g\ m^3/kg$ $v_g = 0,12348$

$V_g = 0,0775\ m^3$

5'ten

$V_t = 80\ lt = kap.$

$P = 160\ kPa$

$m = 4kg$ soğutucu akışkan-134a

a) $T_a = ?$ b) $x = ?$ c) $u = ?$ D) $V_{buhar} = ?$

$80\ lt \times \frac{1m^3}{1000\ lt} = 0,08m^3 = V_{kap.}$

$m = 4kg$

$v = 0,02$ ve $P = 160kPa$ @A-12

$T = 15,60$ a) $v = v_f + v_{fg} \cdot x$

$v_f = 0,0007437\ [m^3/kg]$

$v_g = 0,12348$

$h_f = 31,21$

$h_{fg} = 209,90\ [kJ/kg]$

x = kütlenin oranı

$0,02 = 0,0007437 + (V_g - V_f)x$

$0,02 = 0,0007437 + 0,1227363 \times$

$x = \frac{0,02 - 0,0007437}{0,1227363}$

b) $x = 0,15689$

$h = h_f + h_{fg} \cdot x$

$h = 64,141\ [kJ/kg]$ c)

D) $x = \frac{V_b}{V_T} \Rightarrow V_b = x \cdot V_T$

3-Soğutucu akışkanın, 15,689'u buhar fazındadır.

$V_b = 0,08 \times 0,15689$

Tema I

Problem ⓐ

Öğr) $P = 1\ MPa$

$T = 50°C$

Soğutucu Akışkan – (134a)

$v = ?$ $v_{gerçek} = 0{,}02176$ ile kıyasla

a) $Pv = RT$; ile b) Genelleştirilmiş sıkıştırılabilirlik diyagramı

ⓐ Tablo A-1 R-12

$R = 0{,}06876\ kJ/kg \cdot K$

$\cong 0{,}0815$

$10\ kPa \times V = 0{,}06876\ kJ/kg \cdot K \times 323\ K$

$kPa = N/m^2$

$kJ = N \cdot m$

$v = \frac{0{,}06876 \times 323}{10}\ m^3/kg$

$2{,}22\ m^3 \times 10^{-3}$ Litre'ye

$\rightarrow 1\ MPa = 1000\ kPa$

$v = \frac{0{,}0815 \times 323}{1000} = 0{,}0263\ m^3$

$\frac{0{,}0263 - 0{,}0217}{0{,}0217} = 0{,}21$ hata oranı

Devam

$P_{cr} = 4{,}059\ MPa$

$T_{cr} = 374{,}2\ K$

$P_R = \frac{P}{P_{cr}}$, $T_R = \frac{T}{T_{cr}}$

$\frac{1\ MPa}{4{,}059\ MPa} = 0{,}246$

$\frac{323\ K}{374{,}2\ K} = 0{,}86$

$Z = 0{,}84$

ⓐ Tablo A-15

$P_r = 0{,}246$

$T_R = 0{,}86$ için

$v = v_{ideal} \times Z$

$v = 0{,}0220$

$\frac{0{,}0220 - 0{,}0217}{0{,}0217} = 0{,}014$

$\% 1{,}4$

x = 60

300°C

h = ?

1,6 MPa — 3035,4

1,7 MPa — x

1,8 MPa — 3029,3

$$\frac{x - 3035,4}{(3035,4 - 3029,3)} = \frac{1,7 - 1,6}{1,8 - 1,6} = \frac{0,1}{0,2}$$

$$x = 3032,65 \left[kJ/kg \right]$$

x dopełnienie (do 1 kg) = 100%

kurczy się